Identifying Form and r-Values

Can you identify the Form and r-Values of these displays? If the form is linear, approximate the r-value to express Direction and Strength.

Reminder: An r-value close to -1 is a strong negative relationship, an r-value close to 0 is weak, and an r-value close to +1 is a strong positive!

A

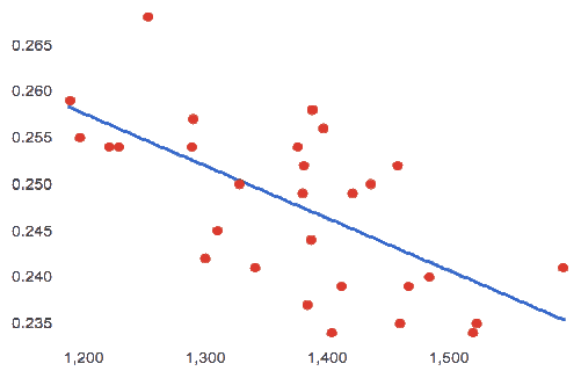

Form: *Linear*

r close to: *-0.6*

B

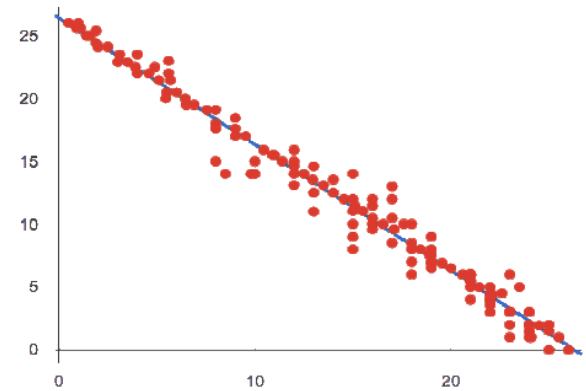

Form: *Linear*

r close to: *-1*

C

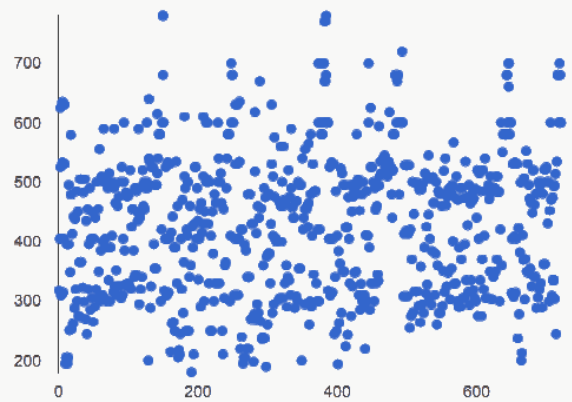

Form: *No Correlation*

r close to: *0*

D

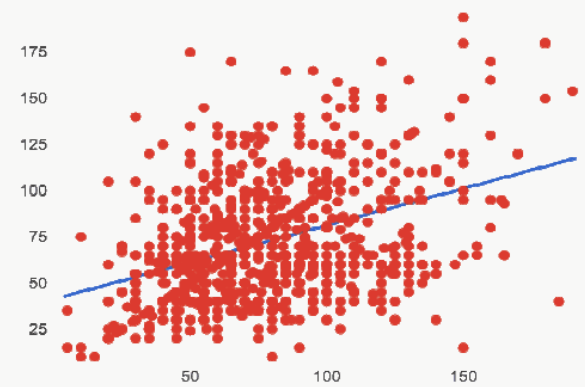

Form: *Linear*

r close to: *0.4*

E

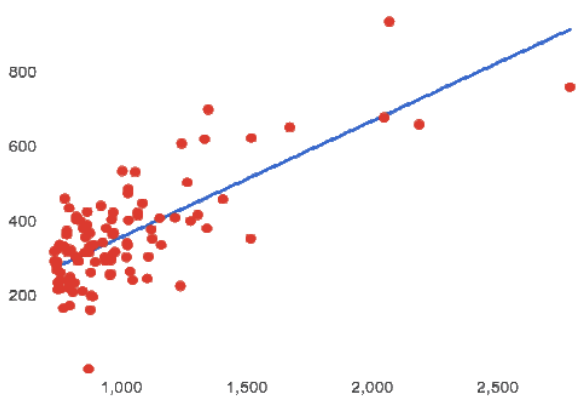

Form: *Linear*

r close to: *0.7*

F

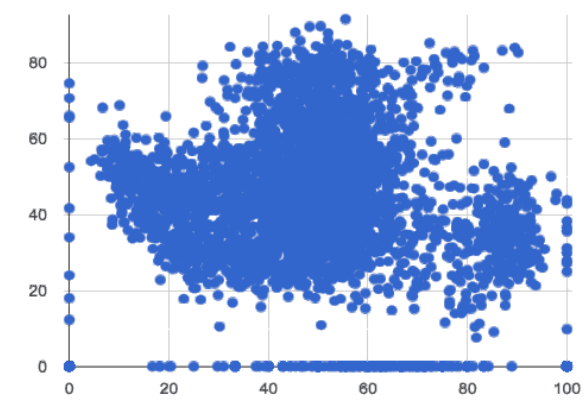

Form: *Non-linear*

r close to: *Non-linear so no*