Grading Predictors

Below are the scatter plots for datasets A-D, with two different predictor lines drawn on top. For plots A-D:

1. Circle the plot with the line that fits better
2. Give the circled plot your best guess for what r is closest to: −1, −0.5, +0.5, or +1.

A	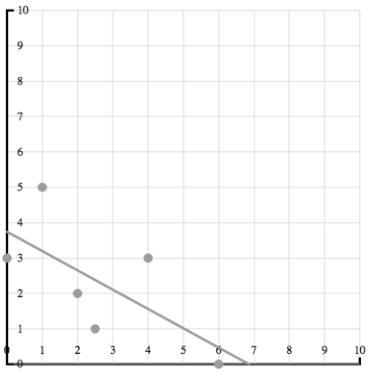	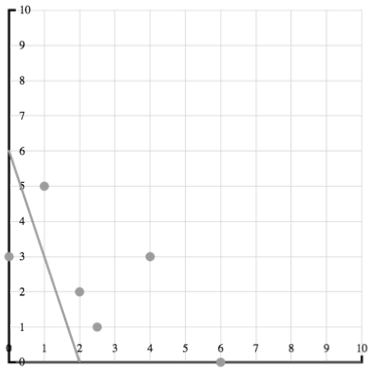	r= −1 −0.5 +0.5 +1
B	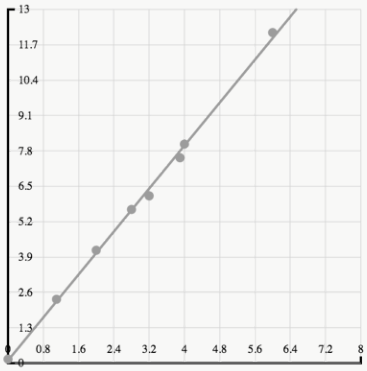	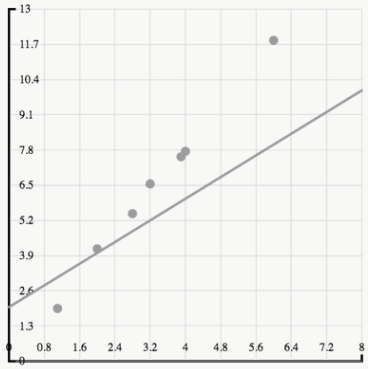	r= −1 −0.5 +0.5 +1
C	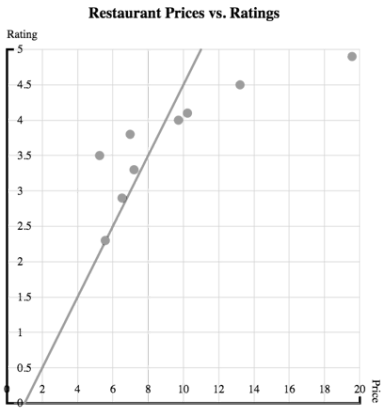	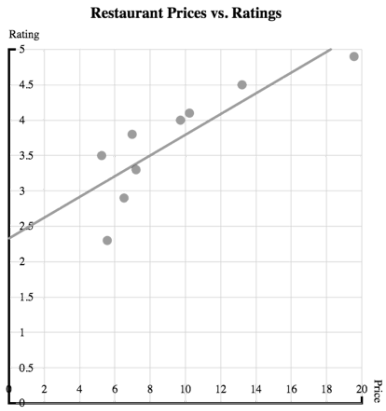	r= −1 −0.5 +0.5 +1

D	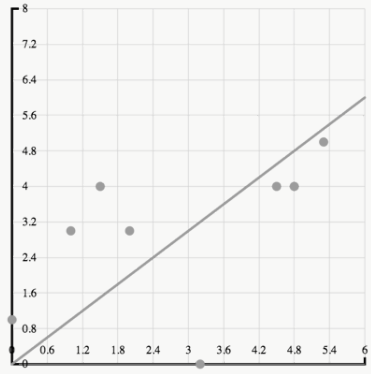	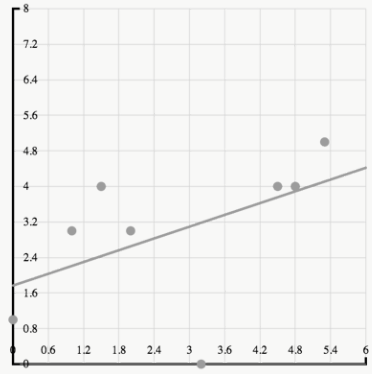	r= −1 −0.5 +0.5 +1